https://www.pinterest.com/outstandingresources/

https://www.facebook.com/orjust4u/

https://www.instagram.com/outstanding_resources/

www.resourcehub.shop

FEEDBACK:

Thank you for purchasing or downloading this product.

FEEDBACK is essential. Please rate and feedback on **ALL** purchases or downloading. Notice a mistake? Then please get into contact first!

Feel free to connect in with outstanding resources at the following links. **THANK YOU for your SUPPORT!**

© Copyright 2019 Outstanding Resources

OUTSTANDING resources

Other Staff:

This resources is only intended for use by a **SINGLE** teacher. In order to share it in your school you must purchase a **SITE** license unless it is a free download.

TERMS of USE:

Thank you for purchasing this product. Permission is granted to copy pages for use within your own classroom for the students you teach. Placing **ANY** part of this product online in any form is a violation of the digital millennium copyright act

All images are either created by Outstanding Resources of are in the public domain

© Copyright 2019 Outstanding Resources

OUTSTANDING resources

Lesson Objective: By the end of the lesson you should be very comfortable with using the **AREA Rule** as well as how to calculate sectors and segments.

1

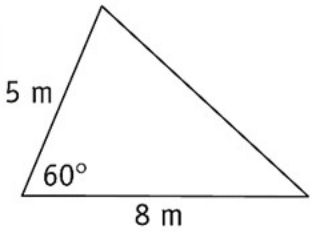

2

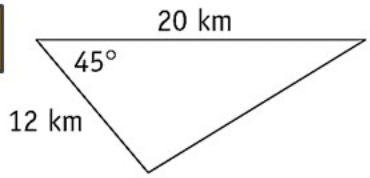

3

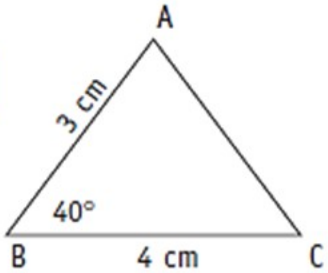

3

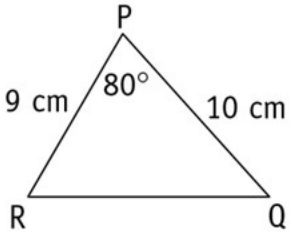

4

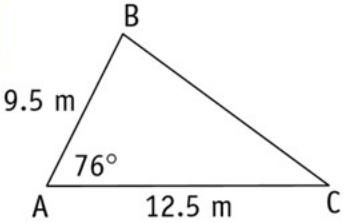

6

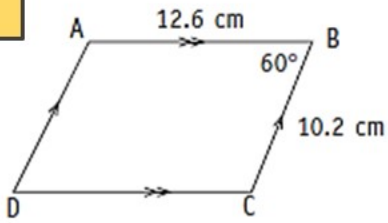

5

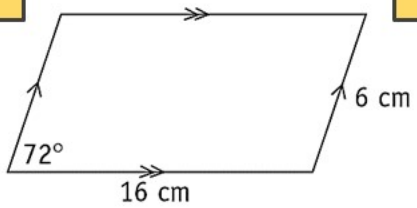

6

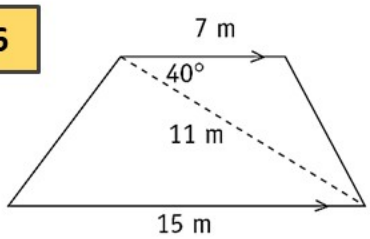

9

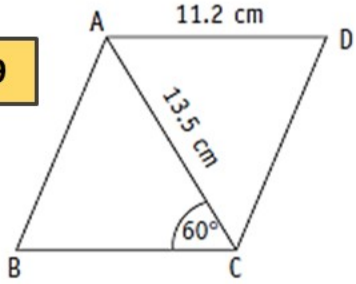

10

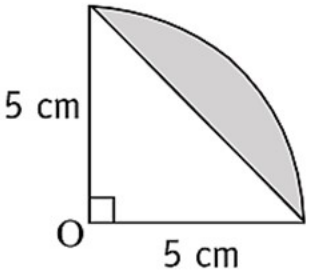

11

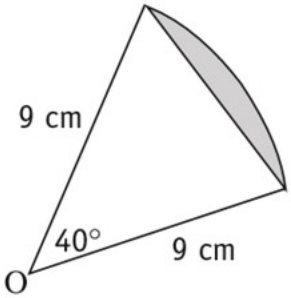

12

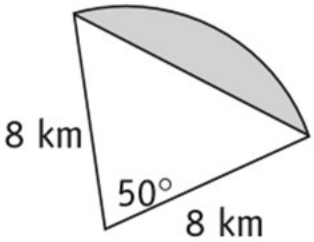

13

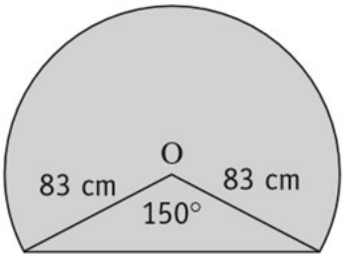

Self Evaluation: What have you learnt today? Are you confident with the area rule? Did you struggle when using the rule in compound shapes and involved sectors and segments?